DATA

Pie Charts, Line and Bar Diagrams

Assignment 01

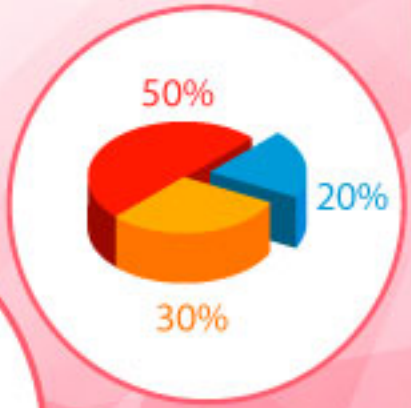

hitbullseye.com

DI: Line, Bar and Pie Assignment – 01

DIRECTIONS ***for questions 1-5***: *Study the following graph carefully and answer the questions given below:*

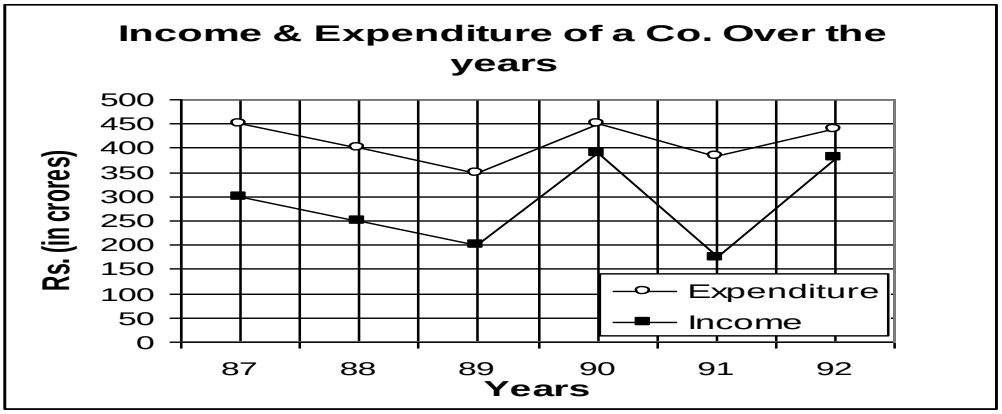

1. The total expenditure of which of the following pairs of years was equal to the income in 1992?

A. 1987 & 1988 B. 1987 & 1989 C. 1988 & 1989 D. None of these

2. What was the percentage decrease in income from 1988 to 1989?

A. 80% B. 50% C. 40% D. None of these

3. In how many of the given years was the expenditure more than the average expenditure of the given years?

A. 4 B. 3 C. 1 D. 6

4. In which of the following years was the percentage of expenditure to the income, the highest?

A. 1987 B. 1988 C. 1989 D. 1990

5. What was the approximate percentage increase in income from 1991 to 1992?

A. 35% B. 40% C. 20% D. None of these

DIRECTIONS ***for questions 6-10:*** *Study the following graph carefully and answer the questions given below:*

Number of candidates (Girls & Boys) Appeared & Qualified Over the Years

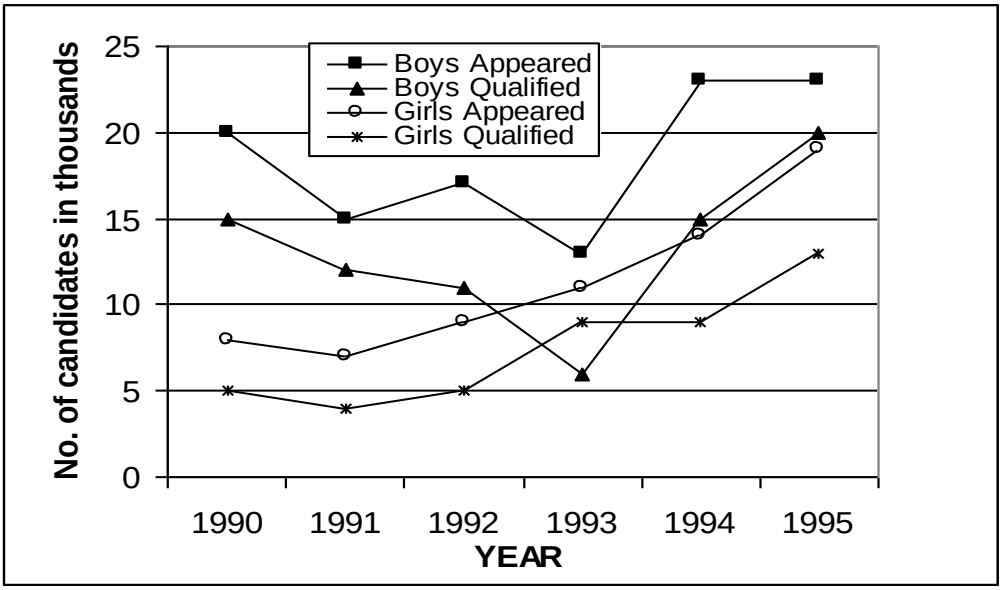

6. What was percentage (approximate) of boys qualified to appeared in the year 1992?

A. 35% B. 70% C. 80% D. 65%

7. In which of the following years, the total number of girls qualified in the years 1991 and 1992 together was exactly equal to the number of girls appeared?

A. 1994 B. 1995 C. 1991 D. 1992

8. What was the % increase in the no. of boys qualified from 1993 to 1994?

A. 50% B. 5% C. 100% D. 150%

9. What was the difference between the total number of boys & girls appeared in 1993 and the total number of boys and girls appeared in 1991?

A. 5000 B. 2000 C. 7500 D. 10000

10. In which of the following years was the percentage of girls qualified to appeared the highest among the years given in the graph?

A. 1991 B. 1993 C. 1994 D. 1992

KEY AND EXPLANATIONS to DI: Line, Bar and Pie Assignment – 01

Sr. No.	Option	Explanation
1.	4	Going by options: For 1987 & 1988, the total expenditure = 450 + 400 = 850 cr. For 1987 & 1989 the total expenditure = 450 + 350 = 800 cr. For 1988 & 1989 the total expenditure = 400 + 350 = 750 cr. Income in 1992 = 380 cr. None of the options satisfies.
2.	4	Income in 1988 = 250 cr. Income in 1989 = 200 cr.% Decrease = $\frac{200-250}{250}\times 100 = 20\%$
3.	2	The average comes out to be around Rs 410. There are 3 years having an expenditure lesser than that.
4.	3	For 1987, % of expenditure to Income = $\frac{450}{300}\times 100 = 150\%$ For 1988, % of expenditure to Income = $\frac{400}{250}\times 100 = 160\%$ For 1989, % of expenditure to Income = $\frac{350}{200}\times 100 = 175\%$ For 1990, % of expenditure to Income = $\frac{450}{400}\times 100 = 112.5\%$ Obviously it is highest for 1989.
5.	4	Income in 1991 = 175 cr. Income in 1992 = 375 cr. %increase = $\frac{375-175}{175}\times 100 = 114.3\%$. None of the options satisfies.
6.	4	Boys qualified in 1992 = 11 thousand. Boys appeared in 1992 = 16 thousand Required %age = $\frac{11}{17}\times 100$ = 64.7%. Nearest value = 65% satisfies.
7.	4	Number of girls qualified in 1991 + 1992 = 4 + 5 = 9 thousand. Girls appeared in 1992 = 9 thousand
8.	4	Number of boys qualified in 1993 = 6. Number of boys qualified in 1994 = 15. % increase = $\frac{15-6}{6}\times 100$ = 150%
9.	2	Total number of boys & girls appeared in 1993 = 11 + 13 = 24 thousand Total number of boys & girls appeared in 1991 = 15 + 7 = 22 thousand Required difference = 24000 = 2000
10.	2	In the year 1991, % increased= $\frac{4}{7}\times 100 = 57.14\%$ In the year 1992, % increased= $\frac{5}{9}\times 100 = 55.55\%$ In the year 1993, % increased= $\frac{9}{11}\times 100 = 81.81\%$ In the year 1994, % increased= $\frac{9}{14}\times 100 = 64.2\%$ i.e. 81.81% is highest.