DATA

Pie Charts, Line and Bar Diagrams

Assignment 02

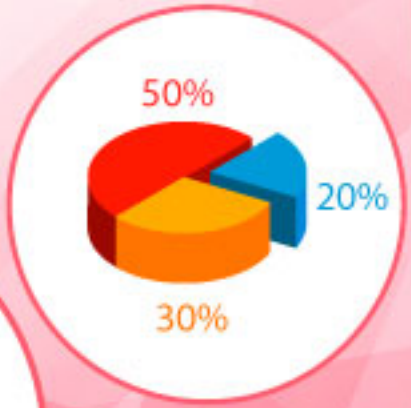

hitbullseye.com

DI: Line, Bar and Pie Assignment – 02

DIRECTIONS ***for questions 1-5***: *Study the following graph carefully and answer the questions given below:*

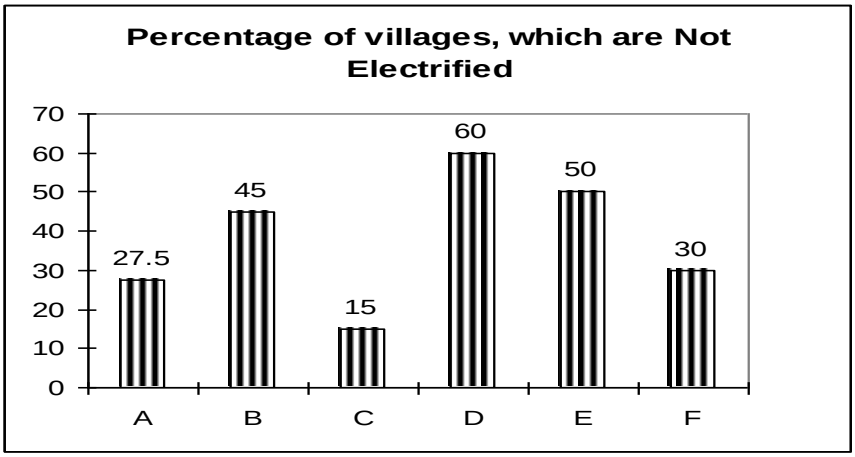

1. If the Central Government desires to give funds for speedy electrification, which state will get fourth rank in the order of priority?

A. C B. B C. A D. None of these

2. Which state has twice the percentage of villages electrified in comparison to state D?

A. C B. F C. A D. None of these

3. In case of State B, what percent of villages are electrified?

A. 75% B. 15% C. 45% D. None of these

4. How many states have at least 60% or more electrified villages?

A. 5 B. 3 C. 4 D. 6

5. Which state has the maximum percentage of electrified villages?

A. A B. B C. C D. D

DIRECTIONS ***for questions 6-10***: *Study the following graph carefully and answer the questions given below:*

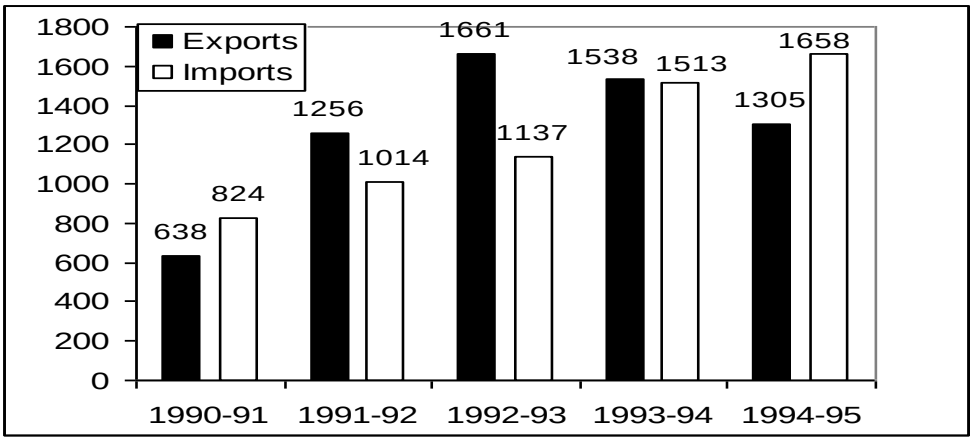

6. The exports in 1993-94 were approximately how many times that of the year 1990-91?

A. 0.41 B. 2.41 C. 0.55 D. 1.84

7. In which of the following years was the gap in the imports and exports the least?

A. 1994-95 B.1992-93 C. 1993-94 D. 1990-91

8. What is the ratio of years having above average exports to those having below average exports in the given period?

A. 3:2 B. 4:1 C. 2:3 D. 1:4

9. Which of the following statements is not true about the graph?

A. There is a continuous rise in imports.
B. From 1992-93 the exports is above average.
C. Till 1992-93 imports is below average.
D. Total imports in the given period are more than the total exports.

10. The imports in 1994-95 are approximately how many percent more than the imports of 1990-91?

A. 49% B. 50% C. 201% D. None of these

ANSWER KEY AND EXPLANATIONS to DI: Line, Bar and Pie Assignment – 02

<table>
<tr><th>Sr. No.</th><th>Option</th><th>Explanation</th></tr>
<tr><td>1.</td><td>4</td><td>The ranking as per percentage of villages which are not electrified is
<table><tr><td>Rank I</td><td>Rank II</td><td>Rank III</td><td>Rank IV</td></tr><tr><td>D</td><td>E</td><td>B</td><td>F</td></tr></table>
It is obvious that to give aid for speedy electrification state ‘F’ will get fourth rank.</td></tr>
<tr><td>2.</td><td>4</td><td>% of villages electrified for village ‘D’ = 40%.
None of the options has 80% village electrified i.e. 20% villages not electrified.</td></tr>
<tr><td>3.</td><td>4</td><td>In case of State B = (100 – 45) = 55% village are electrified.</td></tr>
<tr><td>4.</td><td>2</td><td>For States F, A, C (i.e. 3 states) we have 60% or more are electrified.</td></tr>
<tr><td>5.</td><td>3</td><td>For State ‘C’ the minimum percentage is not electrified.
It is obvious that maximum percentage is electrified.</td></tr>
<tr><td>6.</td><td>2</td><td>The required ratio = $\frac{1538}{638} = 2.41$</td></tr>
<tr><td>7.</td><td>3</td><td>It is for the year 1993-94. In this case we can observe visually, the year for which the two bars least difference of heights.</td></tr>
<tr><td>8.</td><td>1</td><td>The average exports = $\frac{638+1256+1661+1538+1305}{5} = 1279.6$
The years 1990-91; and 1991-92 are below the average exports.
The years 1992-93; 1993-94 and 1994-95 are above the average exports.
Required Ratio = 3:2</td></tr>
<tr><td>9.</td><td>4</td><td>Total imports = 6146. Total exports = 6398. Thus statement (D) is not true.</td></tr>
<tr><td>10.</td><td>4</td><td>Imports is 1994-95 = 1658.Imports is 1990-91 = 824. 1658 is 101.2% more than 824.
None of the option satisfies.</td></tr>
</table>