DATA

Pie Charts, Line and Bar Diagrams

Assignment 03

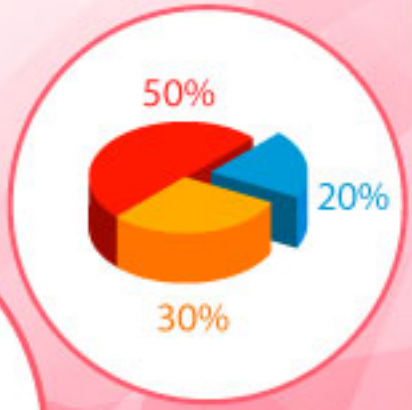

hitbullseye.com

DI: Line, Bar and Pie Assignment – 03

DIRECTIONS ***for questions 1-5***: *The circular graph given shows the spending by a family on various items during the year 1998. Study the graph and answer the questions that follow.*

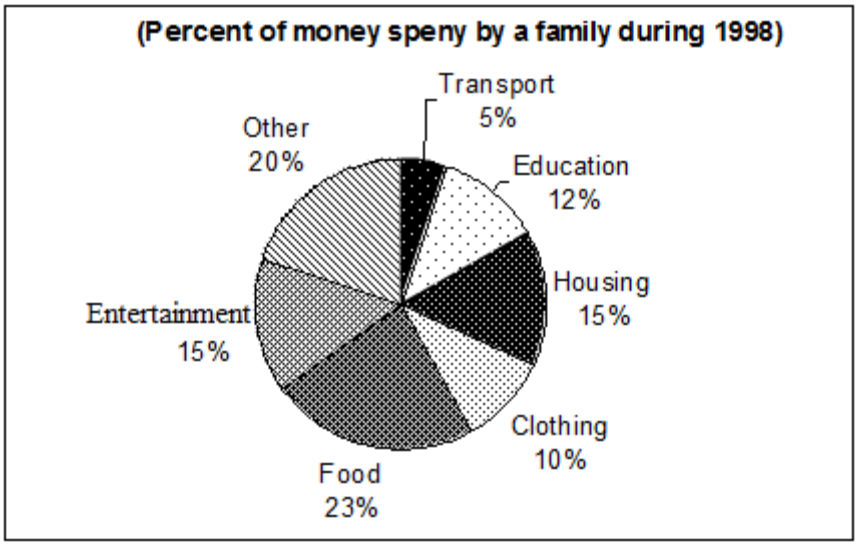

1. If the total amount spent during the year 1998 was Rs. 46000, the amount spent on food was

A. Rs. 2000 B. Rs.10580 C. Rs. 23000 D. Rs. 2300

2. If the total amount spent during the year 1998 was Rs. 46000, the amount spent on clothing and housing together was

A. Rs.11500 B. Rs. 1150 C. Rs. 10000 D. Rs. 15000

3. The ratio of the total amount of money spent on housing to that spent on education was

A. 5:2 B. 2:5 C. 4:5 D. 5:4

4. As per the graph the maximum amount was spent on which item, if the total expenditure was given to be Rs. 48256?

A. Food B. Housing C. Clothing D. Others

5. If the total amount spent during the year 1998 was Rs. 46000, the amount spent on entertainment during the year was

A. Rs. 1500 B. Rs. 15000 C. Rs. 6900 D. Rs. 3067

DIRECTIONS ***for questions 6-10***: *The following circle graph shows the distribution of workers of two industries A and B. Study the graphs carefully and answer the questions given below it accordingly. The figures in both the pie charts are given in degrees.*

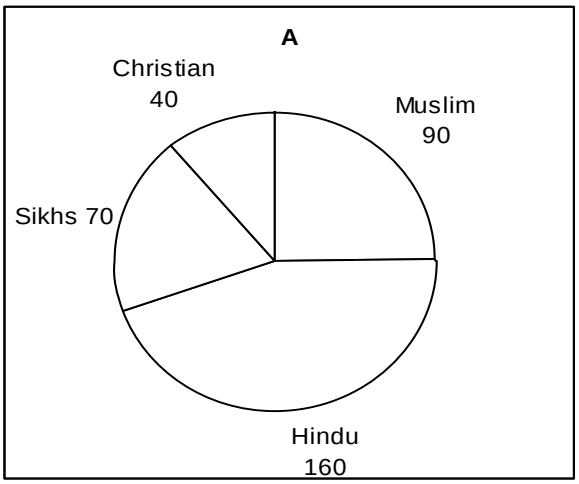

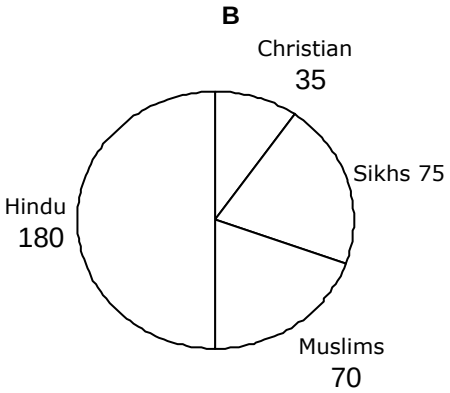

6. Hindu workers in A are

A. 50% B. More than 50% C. Less than 50% D. Unknown

7. Christian workers in A are how much percent of the Christian workers in B?

A. 114% B. 87.5% C. 12.5% D. Data inadequate

8. If there are 1500 Sikh workers in B, then the total number of workers in B is

A. 3600 B. 7200 C. 4800 D. 8000

9. If there are 7200 workers in each one of A and B, then how many Muslim workers are more in A, than those in B?

A. 22.22% B. 28.57% C. 23.47% D. 33.61%

10. If there are 7200 workers in each one of A and B, then approximately what percentage of Muslim workers in B compare to A?

A. 77% of A B. 70% of A C. 74% of A D. 65% of A

KEY AND EXPLANATIONS to DI: Line, Bar and Pie Assignment – 03

Sr. No.	Option	Explanation
1.	**2**	Amount spent on Food = 23% of Rs. 46000/- = Rs. 10580/-
2.	**1**	Amount spent on Clothing and Housing together = (10% + 15% = 25%) of 46000 = Rs. 11500/-.
3.	**4**	Required Ratio = $\frac{15\% \, of \; total \; amt.}{12\% \, of \; total \; amt.} = \frac{15}{12} = \frac{5}{4}$
4.	**1**	Irrespective of the total expenditure, the maximum will correspond to the maximum percentage which happens to be for food i.e. 23% of 48256.
5.	**3**	Reqd. Expenditure = 15% of 46000/- = Rs. 6900/-
6.	**3**	Hindu workers in A are 160^0 i.e. less than 50%.
7.	**4**	We cannot answer this question, as we are not aware of the total workers in A and B.
8.	**2**	1500 Sikh workers corresponds to 75^0 Hence the total no. of workers = $\frac{360}{75} \times 1500$ = 7200.
9.	**2**	Total workers in A = 7200. Muslim workers in A = $\frac{90}{360} \times 7200 = 1800$ Total workers in B = 7200. Muslim workers in B = $\frac{70}{360} \times 7200 = 1400$ Now 1800 is 28.57% more than 1400
10.	**1**	Total workers in A = 7200. Muslim workers in A = $\frac{90}{360} \times 7200 = 1800$ Total workers in B = 7200. Muslim workers in B = $\frac{70}{360} \times 7200 = 1400$ The required %age = $\frac{1400}{1800} \times 100 = 77.77\%.$